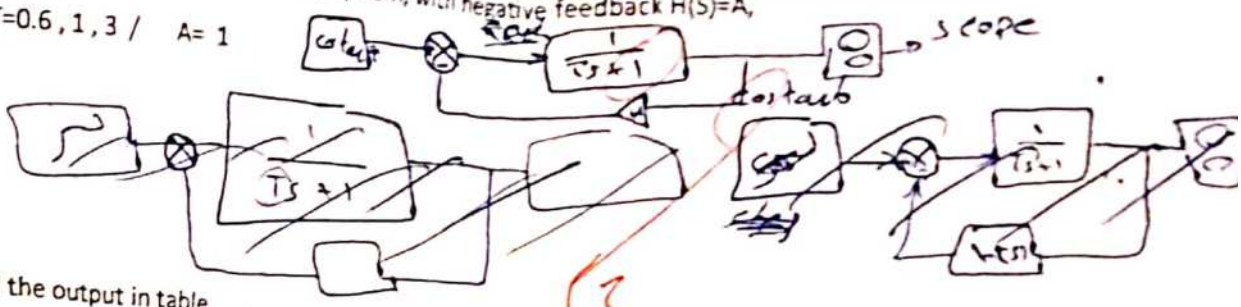
Albalqa Applied University
Mechatronics Engineering Dept.
Faculty of Engineering technology
Control Theory Lab
Mid ExamA3
Student:
Name:

Q1. a Simulate a first order of closed loop system, with negative feedback H(S)=A,

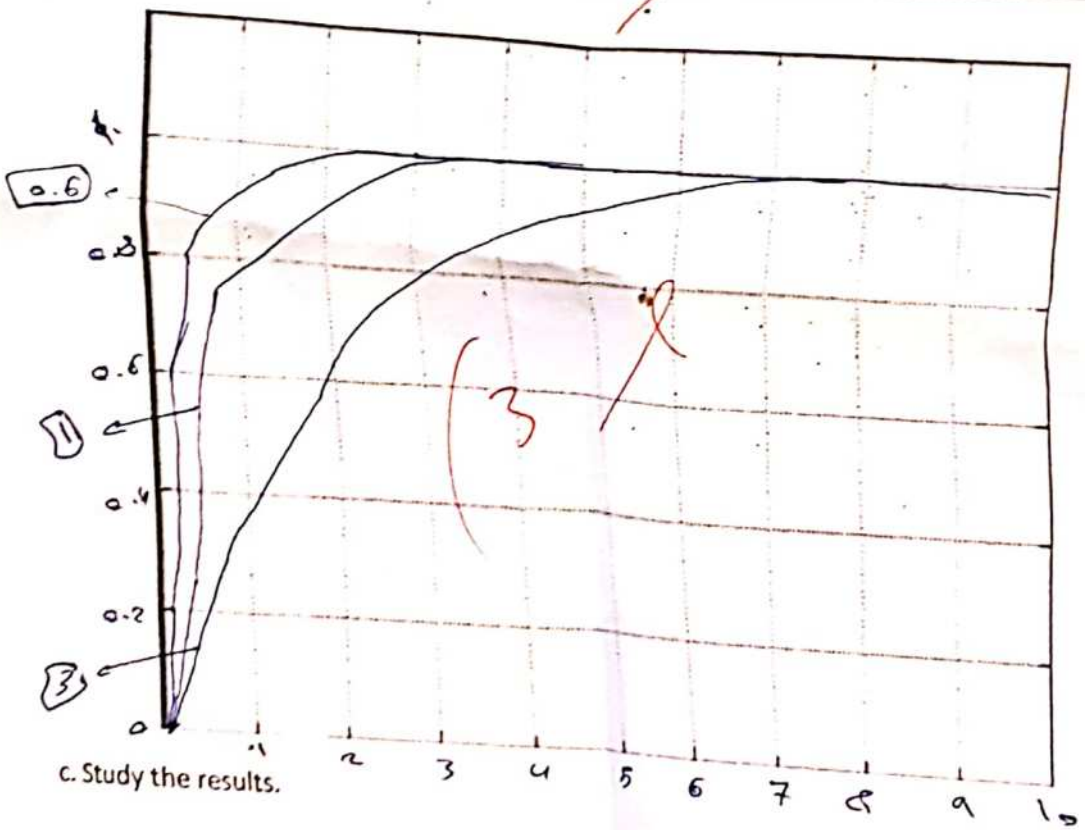
R(t) = 2 / T=0.6 , 1 , 3 / A= 1



b. record the output in table

T	t(s)	0.5	1	1.5	2	2.5	3	3.5	4	4.5	5	5.5	6
0.6	C(s)	0.8	0.96	0.99	1	1	1	1	1	1	1	1	1
1	C(s)	0.63	0.86	0.95	0.98	0.99	1	1	1	1	1	1	1
3	C(s)	0.27	0.48	0.63	0.74	0.81	0.86	0.9	0.93	0.95	0.96	0.97	0.98

c. Plot the output



c. Study the results.

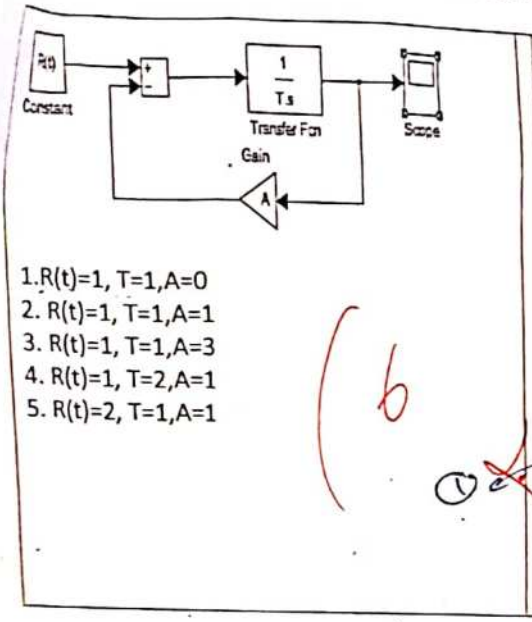
كما زاد T كلما زاد الوقت اللازم للوصول الى steady state

في حالة Feed back

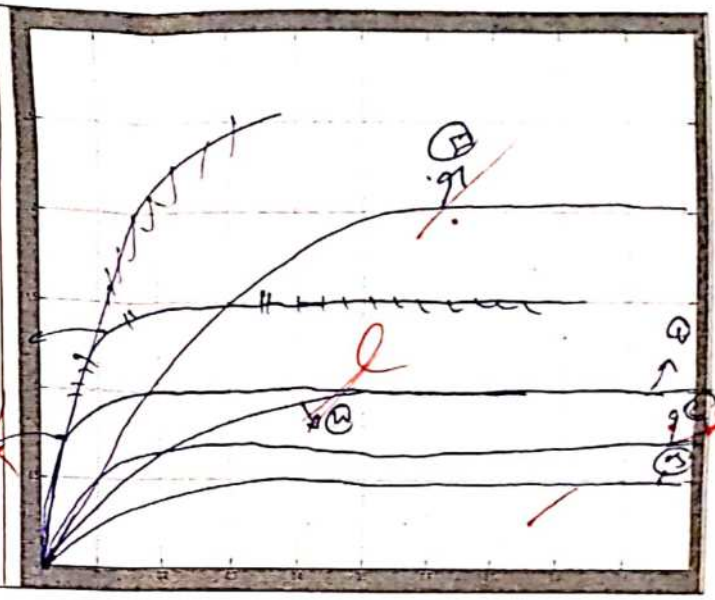
Scanned by CamScanner

Al-Balqa'a Applied University — Faculty of Engineering technology
Mechatronics Engineering Dept. — Control Theory Lab — Mid ExamA5
Student ID:..... Name:.....

Q2. Plot the output response for each of the following conditions



1. R(t)=1, T=1,A=0
2. R(t)=1, T=1,A=1
3. R(t)=1, T=1,A=3
4. R(t)=1, T=2,A=1
5. R(t)=2, T=1,A=1



Q3. For a system given where Y(t) is system output and m(t) is system input ; r(t) = 2

$$y'''(t) - 3y''(t) + 2y'(t) + 4y(t) = r(t)$$

a. Determine the state space matrices

Parameters

A:
[0 1 0;0 0 1;-4 -2 3]

B:
[0;0;2]

C:
[1 0 0]

D:
[0]

$y'''(t) = 3y''(t) - 2y'(t) - 4y(t) + r(t)$

$x_1 = y \rightarrow x_1' = y' = x_2$
$x_2 = y' \quad x_2' = y'' = x_3$
$x_3 = y'' \quad x_3' = y''' = 3x_3 - 2x_2 - 4x_1 + 2$

$$\begin{bmatrix} x_1' \\ x_2' \\ x_3' \end{bmatrix} = \underset{A}{\begin{bmatrix} 0 & 1 & 0 \\ 0 & 0 & 1 \\ -4 & -2 & 3 \end{bmatrix}} \begin{bmatrix} x_1 \\ x_2 \\ x_3 \end{bmatrix} + \underset{B}{\begin{bmatrix} 0 \\ 0 \\ 2 \end{bmatrix}} [r]$$

$$[y] = \underset{C}{[1\ 0\ 0]} \begin{bmatrix} x_1 \\ x_2 \\ x_3 \end{bmatrix} + \underset{D}{[0]}[r]$$

b. Solve this equation by the transfer function

$s^3 y(s) - 3s^2 y(s) + 2s y(s) + 4 y(s) = r(s)$

$y(s)(s^3 - 3s^2 + 2s + 4) = r(s)$

$$\frac{y(s)}{r(s)} = \frac{1}{s^3 - 3s^2 + 2s + 4}$$

Scanned by CamScanner